Suggested problems: 1-21 odd

Problem 1: For each shaded region R below, write $\int_R f\ dA$ as an iterated integral in polar coordinates.

(a)

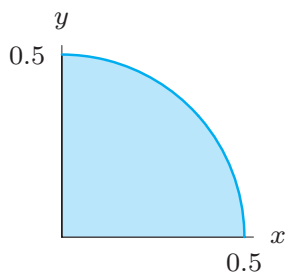

(b)

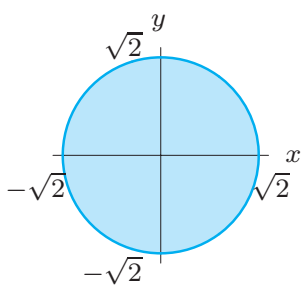

(c)

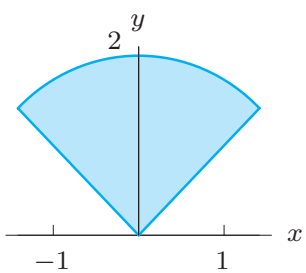
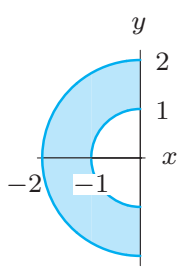
(d)